ELEVATE COACHING
LEARN TODAY. LEAD TOMORROW

Puzzles for Banking

Q1. Study the following information carefully and answer the question given below:

Seven friends- M, V, K, D, T, J and R study in the class III, IV, V, VI, VII, VIII and IX. Each has a favourite colour viz. Yellow, Sky-Blue, Red, White, Black, Green and Violet.

J likes red colour and studies in class V. R likes Violet colour and studies in class III. M studies VIII and he likes neither green nor Yellow colour. K likes white colour and he studies neither in class VII nor in class IV. D studies in class VI and likes Black colour. T doesn't study in class IV. V doesn't like Green colour.

Puzzles. Date 2nd March 202

↳ Linking Based Puzzles.

↳ +ve & -ve Statements.

BANK - Moderate, Main Ques - 4-5, Sub Ques. Tough

STATE/SSC - Easy.

Q1.

Person	Colour	Class	
M	S. Blue.	VIII	× Green / Yellow
V	Yellow	IV	× Green
K	White	IX	× VII / IV
D	Black	VI	
T	Green	VII	× IV
J	Red	V	
R	Violet	III	

(i) IV

(ii) T

(iii) VII - T

(iv) M - Blue. Ans.

Q2. Study the following information carefully and answer the question given below: Six friends- Deepak, Varun, Anit, Nilesh, Rajesh and Siddharth are studying six different specializations of engineering which are- metallurgy, telecommunication, software, mechanical, electrical and hardware not necessarily in the same order. Each one likes a different sport- Hockey, Cricket, swimming, football, badminton and tennis, again not in the same order. Nilesh is not studying hardware. Rajesh is studying software and likes hockey. Anit likes swimming and is not studying hardware. The one who likes football is studying electrical. Siddharth is studying mechanical and does not like tennis. The one who likes badminton is studying telecommunications. Deepak and Varun do not like badminton. Deepak does not like tennis.

Q2.

	Friends	Specialisation	Sport.
Tennis / Badminton	Deepak	Electrical	Football
Badminton	Varun	Hardware	Tennis
Hardware	Anit	Metallurgy	Swimming
Hardware	Nilesh	Telecom	Badminton
	Rajesh	Software	Hockey
Tennis	Siddharth	Mechanical	Cricket

Football - Electrical. Telecom - Badminton

Q7. Study the following information carefully and answer the question given below: Eight members A, B, C, D, E, F, G and H belonging to three families X, Y, Z go for weekend outing in three different cars I, II, III. Four out of eight members are females. Members of each family travel in different cars. Each car has at least one male and one female member. Each family has at least two members. A belongs to family Y and he travels in car III. D is wife of E and they travel in car I and II respectively. H is the son of B who is wife of G and they belong to family Z. C is daughter of F who is wife of A. C travels in car II. G does not travel with F.

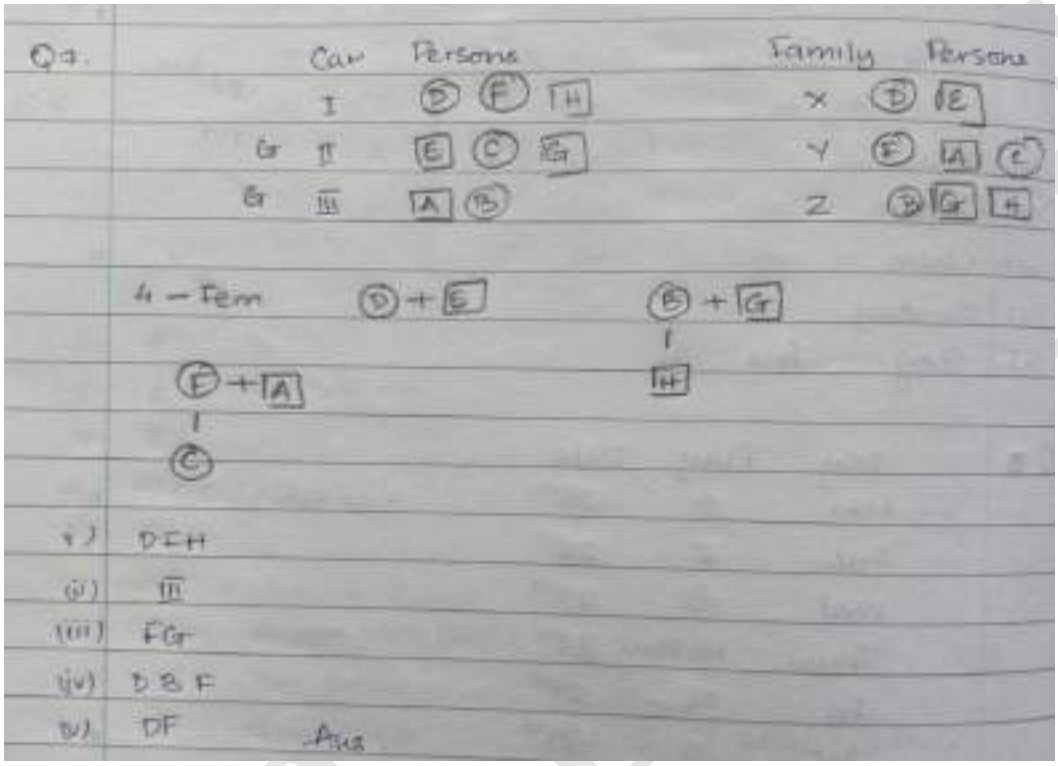

6. Study the following information carefully and answer the questions given below: A,B,C,D,E,F,G & H are sitting around a circular table facing the centre. Each one of them has a different profession viz. doctor, engineer, architect, teacher, clerk, shopkeeper, businessman and banker. A sits third to the right of teacher. D sits second to the left of G. G is not an immediate neighbour of the teacher. Only one person sits between B who is the shopkeeper and teacher. The one who is the architect sits third to the right of the shopkeeper. H sits between architect and engineer. E is not an immediate neighbour of H. Engineer sits third to the right of clerk. Only one person sits between businessman and F. E is neither a businessman nor a doctor.

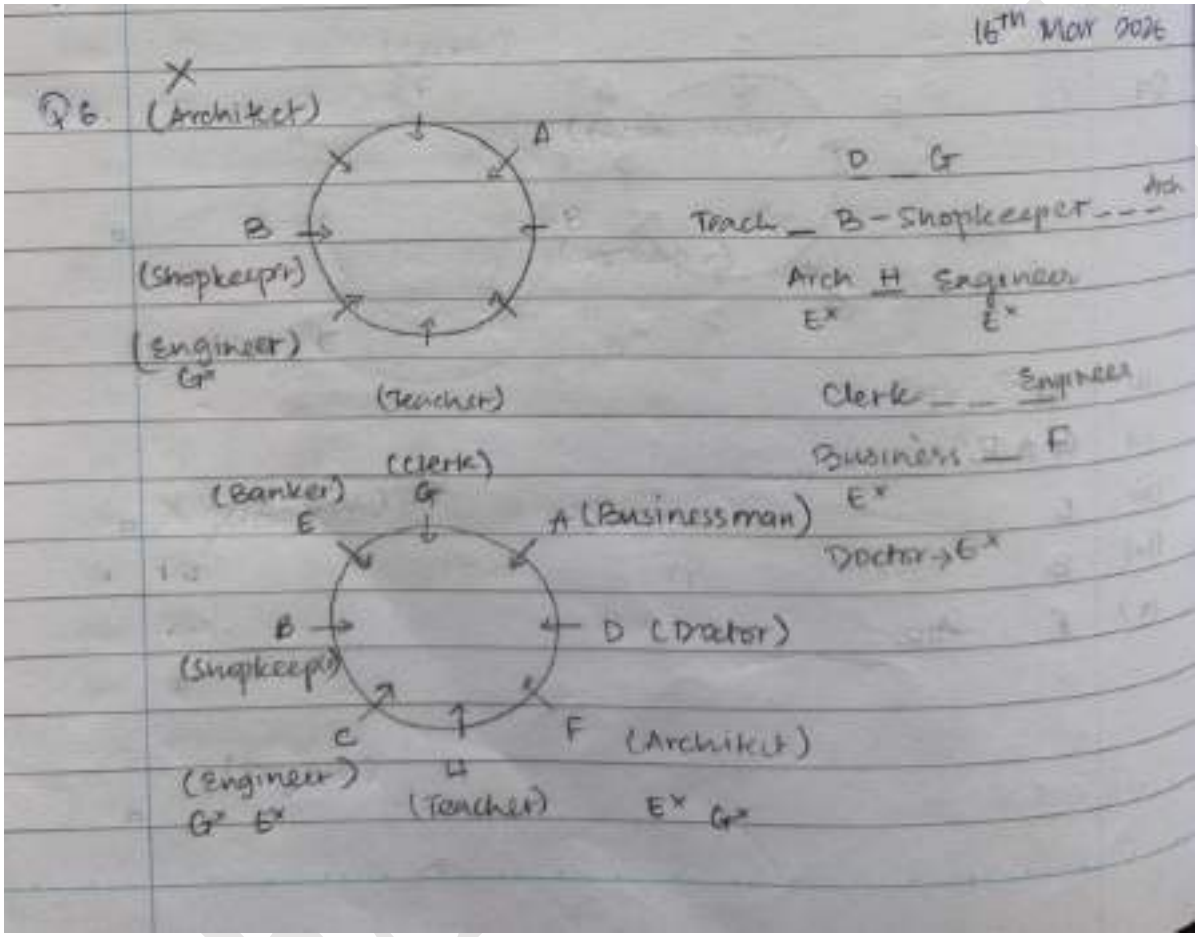

8. Study the following information carefully and answer the questions given below:

A,B,C,D,E,F,G & H are sitting around a square table facing the centre in such a way that four of them sit at four corners of the square while four sit in the middle of each of the four sides:

(A) A sits second to the right of F. F sits in the middle of one of the sides of the table.

(B) G who does not sit at any of the corners of the table sits second to the right of D.

(C) Only two people sit between D and B (taken from one side)

(D) C is not an immediate neighbour of G.

(E) H sits second to the left of B.

(F) E is not an immediate neighbour of G or F.

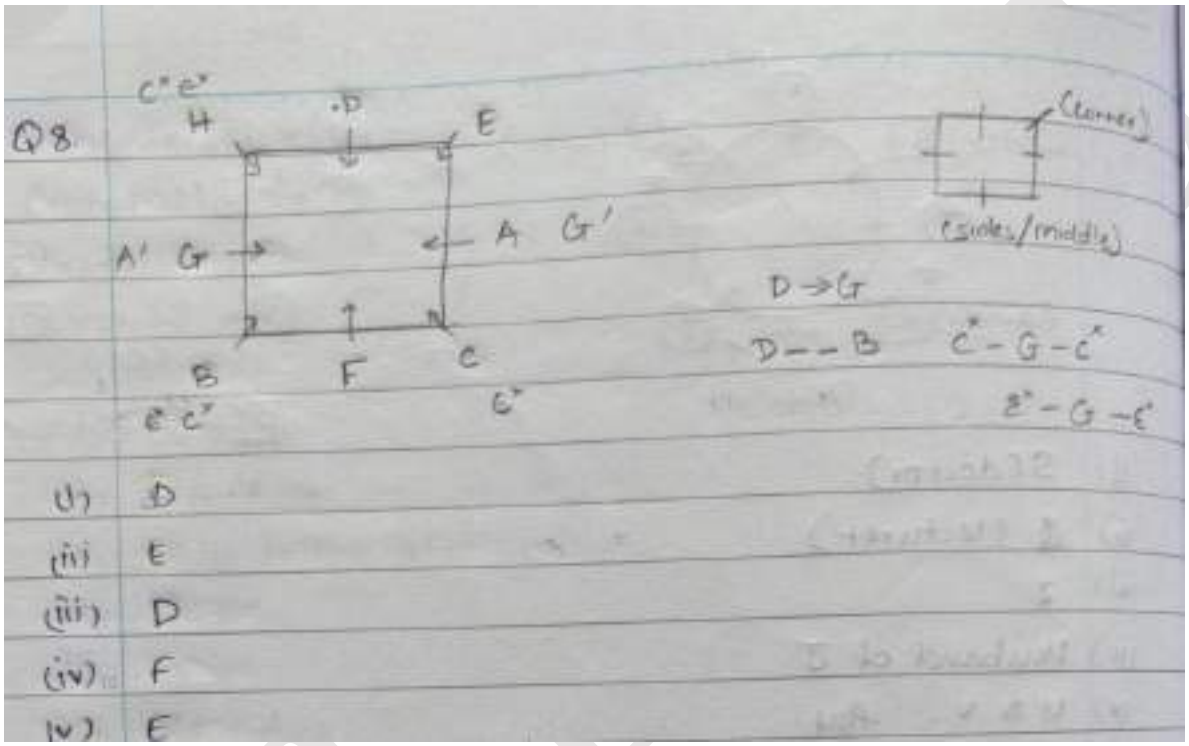

Syllogisms

SYLLOGISM 25th Mar 2026

element

PEN — TABLE — CHAIR

→ Shows the relation between elements

→ Does not have to follow real life relation / situations

* Elements
* Statements
* Conclusions

SYLLOGISM:

Discussion of the relation between the elements

FORMAT:

Statement:

Some pen are paper

All papers are notebooks

No notebook is tomato

Quantifier — Elements

Elements and Quantifiers.

Conclusion:

Will talk about the hidden relation of the given statement

QUANTIFIERS:

1. All

→ Each, every, any, only, 100%, No keyword. → eg A is B

All A is B

2. No:

→ None, Never, all not, no one.

3. Some

→ Few, at least some, almost all, maximum, minimum, many, most of, mostly, more, generally, 0.1% to 99%

4. Some Not

→ Hardly, Scarcely, Seldom

IMPORTANT VENN DIAGRAM

1. All A are B.

2. Some A are B

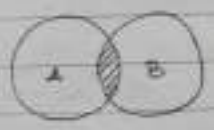

3. No A are B — 0% Positive / 100% Negative

Blank Space

No Relation does not mean 100% negative relation

4. Some A are not B all (hidden key word)

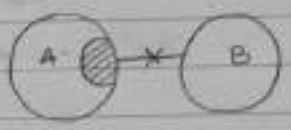

4 main points to remember:

1. Only what you see in the venn diagram will be true.

2. When there is no relation between any two elements, then :

i) All definite conclusion (can't contradict the definite relation) will be treated as false.

ii) All types of possible conclusion will be treated as true.

3. Whenever it is needed to get a true conclusion based on the blank space of a venn diagram, we will get it in the form of a possibility.

4. A relation that is definitely seen in a venn diagram can never be a possibility.

EXAMPLE 1:

Statement :

All A are B

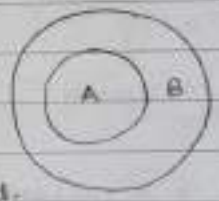

* No Relation (Blank space) can be assumed as either +ve or −ve provided it does not contradict the definite conclusion

* can be true only in terms of a possibility

Conclusion :

1. Some B are not A ✗ (definite cond.) →

↳ False

2. Some B are not A is a possibility ✓ → 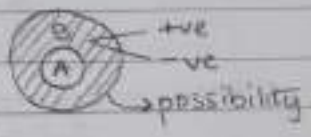

↳ True

3. All B are A ✗ →

↳ False

4. All B are not A is a possibility ✗ (possible cond.) →

↳ False

→ +ve relation

∴ 100% of B cannot have a −ve relation with A.

2. When there is no relation between any two elements, then :

i) All definite conclusion will be treated as false. (can't contradict the definite relation)

ii) All types of possible conclusion will be treated as true.

3. Whenever it is needed to get a true conclusion based on the blank space of a venn diagram, we will get it in the form of a possibility.

4. A relation that is definitely seen in a venn diagram can never be a possibility.

EXAMPLE 1:

Statement :

All A are B

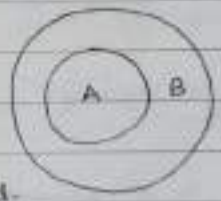

* No Relation (Blank space) can be assumed as either +ve or −ve provided it does not contradict the definite conclusion

* can be true only in terms of a possibility

Conclusion :

1. Some B are not A ✗ (definite cond.) → False

2. Some B are not A is a possibility ✓ → True



3. All B are A ✗ → False

4. All B are not A is a possibility ✗ (possible cond.) → False

+ve relation

∴ 100% of B cannot have a −ve relation with A.

Dice

DICE

25th Feb 2026

→ It is a 6 sided figures.

→ Sides are also called as edges, faces, surfaces.

↳ can be numbers, letters, symbols, shapes, etc.

→ Based on:

I. OPPOSITE SIDE

3 seen

3 Hidden

Front Right Top

Back Left Bottom

II. ADJACENT SIDE

• Adjacent sides share their boundary.

Front – Top, Right, Bottom & Left.

* Each side has → 1 opposite side and 4 adjacent sides.

TYPES OF QUESTIONS:

→ 1 common side is given.

→ 2 common sides are given.

→ Unfolded Dice.

STANDARD DICE:

A standard die is usually seen in board games. (Eg: Ludo)

→ Each opposite pair gives a sum of 7

1 2 3
6 5 4

1+6 = 7
2+5 = 7
3+4 = 7
} FIXED

NORMAL DICE:

IF ONE COMMON SIDE IS GIVEN:

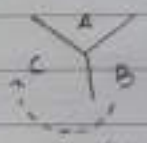

fig (i)

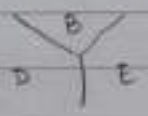

fig (ii)

* move in clockwise direction.

i. If we see the sides in the same fig, They are adjacent to each other.

ii. Two opposite sides can never be seen together in the same fig.

∴ we cannot see the 6TH side, we cannot assume what the 6TH side is

can be → 100, □, F (Since not mentioned)

(i) Common side

(ii) Write the arrangement in clock-wise order.

Q1.



→ C is opposite to E. Ans

Q2.



→ F is opposite to B. Ans

Q3.



→ Opposite to 4 (dots) = 3. Ans

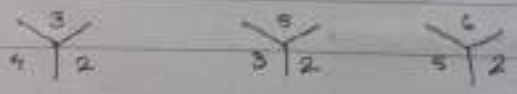

* More than 2 figs.

→ Take any two dice that have exactly one side common

UNFOLDED DICE

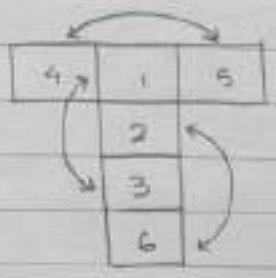

→ From this unfolded fig., which of the following can be made

→ Look for Alternate pairs

1 — 3, 2 — 6, 4 — 5 (set of opposite sides)

Eg:

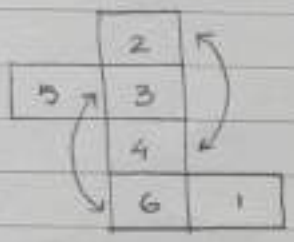

1 — 5, 2 — 4, 3 — 6 (opp sides)

Eg:

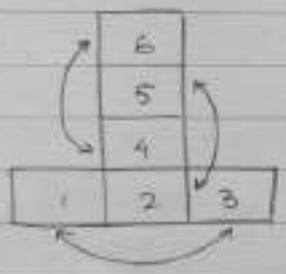

2 — 5, 4 — 6, 1 — 3

Eg:

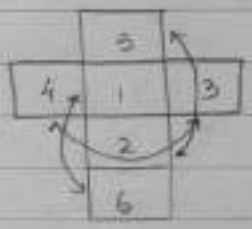

1 — 6, 2 — 5, 3 — 4

Eg

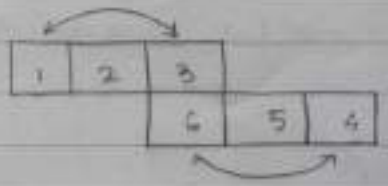

1 — 3, 6 — 4, 2 — 5

NOTE:

(i) Opposite sides can never be seen together

(ii) Adjacent sides can be seen together.

Calendar

CALENDAR — 9th Feb 2026

→ NORMAL YEAR — 365 Days

→ LEAP YEAR — 366 Days

IDENTIFYING LEAP YEAR

NON-CENTURY:

* Divisible by 4 (last 2 digits)

Eg: 1997, 2026

CENTURY

* Divisible by 400

Eg 1900, 2000, 2100

$\frac{1900}{400}$, $\frac{2000}{400}$

CODES:

DAY CODES:

SUN — 1

MON — 2

TUE — 3

WED — 4

THU — 5

FRI — 6

SAT — 0

MONTH CODES:

	J	F	M	A	M	J	J	A	S	O	N	D
NORMAL YEAR:	1	4	4	0	2	5	0	3	6	1	4	6
LEAP YEAR:	0	3										

CENTURY CODES:

1500s — R+0

1600s — R+6

1700s — R+4

1800s — R+2

1900s — R+0

2000s — R+6

2100s — R+4

2200s — R+2

2300s — R+0

INDIVIDUAL DATES:

Q1. 16 Aug 1941

Month code

R ↓ ÷7 ↓ R ↓ 4 = Q ↓ ÷4

2 + 3 + 6 + 10

7)16(2
14
2

7)41(5
35
6

4)41(10
40
1

$= \frac{21}{7} = 0 + 0 = 0$ → Saturday. Ans.

↳ check day code

R + 0

↳ check century code

Q2. 25 Jan 1956

4 + 0 + 0 + 14

$= \frac{18}{7} = 4 + 0 = 4$ → Wednesday. Ans

Q3. 11 Feb 1992

4 + 3 + 1 + 23

$= \frac{31}{7} = 3 + 0 = 3$ → Tuesday. Ans.

7)92(13
7
22
21
1

Q5. 10 Feb 2026

3 + 4 + 5 + 6

$= \frac{18}{7} = 4 + 6 = \frac{10}{7} = 3$ → Tuesday. Ans

Q6. 18 Sept 2015

4 + 6 + 1 + 3

$= \frac{14}{7} = 0 + 6 = 6$ → Friday. Ans

Q8 24 June 1857

$3 + 5 + 1 + 14$

$= \frac{23}{7}$. $2+2 = 4$ → Wednesday. Ans.

Q 10 12 Oct 1757

$5+1+1+14$

$= \frac{21}{7}$. $0+4 = 4$ → Wednesday. Ans

Q11 3 Jan 1900

$3+1+0+0$

$= \frac{4}{7}$. $4+0 = 4$ → Wednesdays. Ans.

RELATIVE DATES: 10 Feb 2026

→ Different dates

↳ Found & Given (Leaning Code needed)

Q14 11 Jul 1961

$4+0+5+15$

$= \frac{24}{7}$. $3+0 = 3$ → Tuesday

Found Given

Tue → Mon

Sat → Fri

28 Nov 1931

$0+4+3+7$

$= \frac{14}{7}$. $0+0 = 0$ → Saturday

→ Friday. Ans

Clock

CLOCKS

16th Feb 2026

HOUR - HAND:

The angle formed in 12 hours = 360°

So, The angle formed in 1 hour $= \frac{360°}{12} = 30°$

The angle formed in 1 minute $= \frac{30°}{60} = \frac{1}{2}$

Hence, the speed of hour-hand = $\frac{1}{2}$ / minute

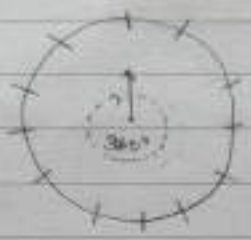

12 hrs = 360°

1 hr $= \frac{360}{12} = 30°$

60 mins = 30°

1 min $= \frac{30}{60} = \frac{1}{2}°$

$\boxed{30°/\text{hr} \; ; \; \tfrac{1}{2}° \; (0.5°) / \text{min}}$

Angle covered by the hour/min hand? (Questions asked)

MINUTE - HAND

The angle formed in 60 minutes = 360°

So, The angle formed in 1 minute $= \frac{360°}{60} = 6°$

Hence, the speed of the minute-hand = 6° / minute

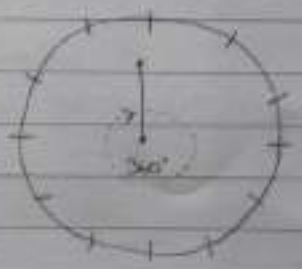

60 mins = 360°

1 min $= \frac{360°}{60}$

$= 6$

$\boxed{6°/\text{min}}$

SECOND - HAND

The angle formed in 1 minute = 360°

Hence, the speed of second-hand = 360°/minute

$\boxed{360°/min}$

$\boxed{\text{ANGLE} = \text{SPEED} \times \text{TIME}}$

Q1. Angle = 30° × 2 (2pm - 4pm)
= 60° Ans

per min:
$\frac{1}{\cancel{2}} \times \overset{60}{\cancel{120}}° = 60°/min$

Q2. Angle = 6° × 120 min (2 hour)
= 720° Ans

Q3 (M1) Angle = $\frac{1}{\cancel{2}} \times \overset{112.5}{\cancel{225}}$ min
= 112.5° Ans

180 (3hrs)
45
225

(M2) 12 - 3 : 45

3hrs 45mins

30° × 3 $\frac{1}{\cancel{4}} \times \cancel{45}$ 22.5
= 90° = 22.5°

(90° + 22.5) = 112.5° Ans.

90° $\frac{3}{4} \times 30°$

90° + 22.5° = 112.5

converting 45mins → Hours.
minutes → hours (÷ 60)
30mins → $\frac{30}{60}$ hours
45 mins → $\frac{45}{60}$ hours
= $\frac{3}{4}$ hours.

Angle b/w hands of a clock:

modulus - ignore if you get a -ve value.

$$\frac{|60H - 11M|}{2}$$

H - hours

M - mins

Q4. 7:30 (Angle b/w hour-hand and minute-hand)

$$\frac{60 \times 7 - 11 \times 30}{2} \leftarrow \text{(finding initial angle)}$$

$$= \frac{420 - 330}{2}$$

$$= \frac{90}{2}$$

$$= 45^\circ$$

($\because$ 45° is not there in the options)

$\hookrightarrow$ Angle = 360° - 45°

= 315° Ans.

Q5. (from Q4)

Both A and C. Ans.

(45°) (315°)

Q6. (from Q4 → if both A & C is not in the option and 45° and 315° are in the option → Go for the smaller angle).

45° Ans.

Q7.

$$\frac{60 \times 5 - 11 \times 10}{2}$$

$$= \frac{300 - 110}{2}$$

$$= \frac{190^{95}}{\cancel{2}}$$

$$= 95^\circ \text{ Ans.}$$