ELEVATE COACHING
LEARN TODAY, LEAD TOMORROW

Test 4

English

Choose the correct one word substitute.(1-4)

1. A strong verbal or written attack on someone or something.
a) Pastorate b) Polemic c) Psychosomatic d) Obstetric

2. Government by a mob or a mass of people.
a) Oligarchy b) Neocracy c) Ochlocracy d) Aristocracy

3. A collection of wild animals kept in captivity.
a) Menagerie b) Fiduciary c) Equestrian d) Coalesce

4. The science of the origin and development of the universe.
a) Oncology b) Epidemiology c) Cosmology d) Astrology

Choose the correct Idiom/ Phrase. (5-8)

5. Some secret and improper influence.
a) Be a law unto yourself b) Back you up
c) Daylight robbery d) Backstairs influence

6. To get rid of intense feelings.
a) Bide one's time b) Blow out
c) Blow-by-blow d) Blow off steam

7. To spoil other's plans.
a) Change one's tune b) Chock-a-block
c) Cook someone's goose d) Dirt cheap

8. It should be generally understood or accepted.
a) Go without saying b) Go by the book
c) Go out of one's way d) Get a buzz

Choose the correct synonym of: (9-12)

9. Close knit
a) Cloister b) Adhesive c) Cohesive d) Behest

10. Dampen
a) Bedew b) Coarse c) Doughty d) Drowned

11. Deplored
a) Depress b) Scolded c) Regret d) Deserted

12. Satisfied
a) Contend b) Content c) Contention d) Conundrum

Read the following information carefully and answer the questions carefully (Q13-Q17).
After a delay of nearly a year, the Council of Scientific and Industrial Research (CSIR) has announced winners of the Shanti Swarup Bhatnagar (SSB) Prizes With a legacy of over half-a-century, the awards — they comprise a cash prize, citation and salary perks — are awarded annually to scientists under 45 with outstanding work in the fields of biology, chemistry, engineering, mathematics, medicine, earth sciences and physical sciences. Some of India's most accomplished scientists have been awardees and it is not a stretch to say that they are akin to an "Indian Nobel" and fairly **coveted**. It was unusual then, last year, when the CSIR did not announce awards despite the winners having already been picked before September 26, the institute's foundation day and traditionally the date on which the year's winners are announced. The background to this was the government's decision to **prune** prizes to scientists. There were too many awards by various ministries, thereby reducing its prestige, a Ministry of Home Affairs (MHA) communiqué suggested. There were plans to announce one 'big award' akin to a 'Nobel Prize', but none has been announced so far. While the MHA ultimately decided to retain the SSB prizes, the government's long silence on its future did foment concern among scientists of their likely discontinuation.

Science awards, unlike those given for say athletics, are not meant to fete the outcome of a defined, demarcated contest such as a match or a race but are a recognition for industrious work done over time, that have led to significant advances in science or technology. They are meant to encourage the winners to persevere, against the uncertainty inherent in the scientific enterprise, which on average is a financially less rewarding career than several other options a trained scientist could have embarked upon. This year's 12 winners are all male, with 11 from centrally-funded institutions. Within these too, the winners are largely from the Indian Institutes of Technology. While the chosen candidates are certainly deserving, there are surely many more women or researchers from state universities who deserve recognition for their work. And so, rather than reducing the number of awards, there is actually a stronger case for expanding the remit of these awards, given the government's tireless espousal of its commitment to diversity and expanding opportunities to those beyond enclaves of privilege. The success of India's Chandrayaan-3 mission demonstrates that great victories and moments of triumph are built on consistent encouragement while plodding along the dark alleys of uncertainty and failure.

13. What is the primary reason behind the delay in the announcement of the Shanti Swarup Bhatnagar (SSB) Prizes last year?
a) The CSIR decided to cancel the awards
b) The government pruned the prizes to scientists
c) There were no deserving candidates for the award.
d) The announcement was delayed to coincide with a major scientific event
e) The Ministry of Home Affairs took over the responsibility of the awards

14. Which of the following is an antonym for the word **'coveted'** as used in the passage?
a) Indifferent b)Treasured c) Cherished d) Desired e)Valued

15. Which of the following is a synonym for the word **'prune'** as used in the passage?
a) Plant b) Encourage c) Cultivate d) Trim e) Enlarge

16. What is the author's viewpoint about the demographics of the winners of the Shanti Swarup Bhatnagar (SSB) Prizes and the remit of these awards?
a) The awards should only be given to those from state universities.
b) The awards should be restricted to male scientists
c) The awards should mainly be given to scientists from the Indian Institutes of Technology
d) The awards should be expanded to recognize a greater diversity of researchers, including more women and those from state universities.
e) The winners should include a mix of both scientists and athletes.

17. What is the most suitable title for the passage?
a) The Pruning of Science Awards in India
b) The Diversity Challenges in Indian Science Awards
c) The Delay and Diversity in Shanti Swarup Bhatnagar Prizes
d) The Evolution of Indian Science Prizes
e) The Future Direction of Indian Science Awards

Choose the correct antonym of: (18-21)
18. Collective
a) Individual b) Group c) Clique d) Blithesome

19. Creative
a) Imaginative b) Adored c) Angelic d) Unimaginative

20. Differential
a) Heterogeneous b) Dissuade c) Homogenous d) Mixture

21. Expunge
a) Erased b) Accept c) Reject d) Commended

22. Identify the incorrectly spelt word in the given sentence.
The environmentalist emphasised the need for immediate action against pollution.
a) enviromentalist b) emphasised c) pollution d) immediate

23. In the following question, four words are given in bold, of which one word is misspelled. Find the misspelled word.
Codependancy(A) does not refer to all caring **behaviour(B)** or feelings, but only those that are **excessive(C)** to an **unhealthy(D)** degree.
a) A b) B c) C d) D

Directions(24-25): The sentence given below has been divided into four parts and these parts have been jumbled up. You must choose the option which gives the correct sequence of the parts. If the sentence is already arranged, mark (E) 'No rearrangement required' as your answer.

24. is essential to enable (A) / that deep-sea mining (B) / the energy transition (C) / pro-miners argue (D)
a) DBAC b) DCBA c) BDCA d) BACD e) No rearrangement required

25. infections, restrictions are (A) / seek to revive the economy (B) / being eased as authorities (C) / despite the surge in (D)
a) DABC b) DACB c) BDCA d) BACD e) No rearrangement required

GK & CA

1.On which date is the 16th National Voters' Day scheduled to be celebrated in 2026?

a) 24 January b) 25 January c) 26 January d) 15 January

2. Consider the following statements regarding the 'Repealing and Amending Bill, 2025' introduced in the Lok Sabha:

1. The Bill was introduced in December 2025 to primarily repeal obsolete laws and amend specific existing Acts.
2. It proposes to update terminologies related to registered posts in the General Clauses Act, 1897 and the Code of Civil Procedure, 1908.
3. The Bill seeks to amend the Indian Succession Act, 1925 to simplify the process of validating wills by removing Court intervention in certain cases.
4. An amendment to the Disaster Management Act, 2005 is included in the Bill to rectify a previous drafting error.

Which of the statements given above are correct?

a) 1 and 2 only b) 2, 3, and 4 only c) 1,3, and 4 only d) 1, 2, 3, and 4

3. The Atal Pension Yojana (APY), which completed over a decade of providing old-age income security to the unorganised sector in 2026, was officially launched on which date?

a) 15th August 2014 b) 9th May 2015 c) 1st June 2015 d) 25th September 2015

4. Who is the author of the recently launched book titled "The Sage who Reimagined Hinduism: The Life, Lessons and Legacy of Sree Narayana Guru"?

a) Dr. Shashi Tharoor b) CP Radhakrishnan c) Pinarayi Vijayan d) Arif Mohammad Khan

5. The Tetanus and Adult Diphtheria (Td) vaccine was recently launched by Union Minister Shri J.P. Nadda at which prestigious institute?

a) Indian Institute of Science (IISc), Bengaluru b) Central Research Institute (CRI), Kasauli
c) All India Institute of Medical Sciences (AIIMS), New Delhi d) National Institute of Virology (NIV), Pune

6. The successful qualification level load test of the Drogue Parachute for the Gaganyaan mission was conducted at which of the following facilities

a) Satish Dhawan Space Centre (SDSC), Sriharikota
b) Vikram Sarabhai Space Centre (VSSC), Thiruvananthapuram
c) Rail Track Rocket Sled (RTRS) facility of DRDO, Chandigarh
d) Liquid Propulsion Systems Centre (LPSC), Mahendragiri

7. What is the official theme for World Wetlands Day 2026, as announced by the Ramsar Convention?

a) Wetlands and Human Wellbeing
b) Wetlands and Climate Change
c) Wetlands for a Sustainable Urban Future
d) Wetlands and Traditional Knowledge: Celebrating Cultural Heritage

8. Which organization recently launched the policy report titled 'Revitalizing Apprenticeship Ecosystem: Insights, Challenges, Recommendations and Best Practices'?

a) NITI Aayog
b) Ministry of Skill Development and Entrepreneurship (MSDE)
c) National Skill Development Corporation (NSDC)
d) Federation of Indian Chambers of Commerce & Industry (FICCI)

9. With reference to the "Corruption Perception Index (CPI) 2025," recently seen in the news, consider the following statements:
1. The index is released annually by the World Bank to assess the perception of corruption in the public sector of various countries.
2. In the 2025 report, India's rank improved to 91st as compared to its position in the previous year.
3. For the first time in over a decade, the global average score of the index has witnessed a decline, dropping to 42.
Which of the statements given above is/are correct?
a) 1 and 2 only
b) 3 only
c) 2 and 3 only
d) 1, 2 and 3

10. Which of the following is NOT apart of the Directive Principles of State Policy of the Constitution of India?
a) Protection and improvement of environment and safeguarding of forests and wildlife
b) Protection of monuments and places and objects of national importance
c) Provision for early childhood care and education to children below the age of six years
d) Provision for protection of minority regions in Rajasthan

11. _____ Directive principles of State Policy were added to the Indian Constitution by the 42nd Constitutional Amendment Act of 1976.
a) Two b) Five c) Three d) Four

12. Which of the following committees was responsible for making recommendations that led to the 42nd Constitutional Amendment for the declaration of Fundamental Duties?
a) Swaran Singh Committee b) Khusro Committee
c) Abid Hussain Committee d) Raja Chelliah Committee

13. According to Article 32 of the Indian Constitution, to Right to Constitutional remedies is for the enforcement of
a) Fundamental Rights b) Fundamental Duties
c) Dictatorship d) Directive Principle

14. Which writ is issued by a high court or supreme court when a lower court has considered a case going beyond its jurisdiction?
a) Quo Warranto b) Prohibition
c) Habeaus Corpus d) Certiorari

15. Which of the following is mentioned in Article 1 of the Indian constitution?
a) India that is Bharat as a federation of states
b) India that is Bharat as parliamentary democracy
c) India that is Bharat shall be a Union of states
d) India that is Bharat as Presidential form of democracy

16. GV Mavalankar was the Chairman of the _____ of the Constituent Assembly of India.
a) Advisory Committee on Fundamental Rights, Minorities and Tribal and Excluded Areas
b) Committee on the Functions of Legislation
c) Order of Business Committee
d) Ad hoc Committee on the National

17. Which of the following is NOT a feature of the Constitution of India?
a) Universal Adult Franchise b) Dual Citizenship
c) Independent Judiciary d) Blend of rigidity & flexibility

18. Which of the following pairs of 'Dynasty-Ruled region' is correctly matched?
I. Sakas - North west and north India
II. Vakatakas - Central and western India
a) Neither I nor II b) Only II c) Only I d) Both I and II

19. Who were the first foreign rulers of northwest India in the post-Mauryan period?
a) Kushanas b) Sakas c) Parthians d) Bactrian Greeks

20. First coins in Indian history bearing the names and images of rulers were issued by the:
a) Mauryas b) Gupta c) Pushyabhutis d) Indo-Greeks

21. Megasthenes was an ambassador who was sent to the court of which Indian ruler by the Greek ruler, Seleucus Nicator?
a) Ashoka b) Bindusara c) Chandragupta d) Pushyamitra Shunga

22. Which one of the following statements about the Shvetambara Sect of Jainism is not correct?
a) It refers to monks, who wear white clothes.
b) It refers to monks, who migrated to the south of Vindhyas in 4th century BCE.
c) They recognized the existence of canonical texts including the 12 Angas.
d) They believed that women can also attain salvation.

23. Consider the following statements in the context of the Vedas.
1. The Vedas are called Shruti.
2. The Rigveda consists of ten Mandalas.
Which of the statements given above is/are correct?
a) Only 1 b) Only 2 c) Neither 1 nor 2 d) Both 1 and 2

24. The remains of Great Bath have been found from the excavation at which of the following Harappan sites?
a) Lothal b) Kalibangan c) Harappa d) Mohenjodaro

25. Rulers of Mahajanapadas in ancient India collected taxes on crops at the rate of _____ of what was produced.
a) $1/3^{rd}$ b) $1/5^{th}$ c) $1/6^{th}$ d) $1/4^{th}$

REASONING

(Q1-Q5) 8 persons sit in two parallel rows in such a way that in row 1, P,S,T and V sit facing south while Q,R,U and W face north. The persons of row 1 face the persons of row 2 and vice versa.
W faces the person, who sits 2nd to the left of V.T sits adjacent to V. S faces R. P doesn't sit at the left end of his row. Q sits to the right of U.
1. Who faces Q?
a) T b) V c) P d) Can't be determined e) None of these

2. Find the odd one out.
a) T b) V c) W d) Q e) P

3.____sits to the immediate right of T and W sits to the immediate right of _____.
a) V,U b) P,R c) V,Q d) S,U e) None of these

4. How many persons sit between U and R?
a) Zero b) Either A or D c) None of these d) One e) Two

5. Four of the following five are related to each other in some way and thus formed a group. Choose the one which does not belong to the that group.
a) V b) W c) S d) U e) R

(Q6-Q10) Rahul, Rajesh, Rakesh, Ravi and Ramu are five friends Who are planning to visit Goa. Each of them visits in different months among February, March, May and June, not necessarily in the same order. They also visit in different dates among 10, 12, 14 and 31, again not necessarily in the same order. All of them visited in the same year. None of the two persons visit Goa on the same day.
Two persons visit Goa in the month of March. Two persons visit Goa on 12th. Rajesh visits Goa in May. Ravi visits Goa on 31st. Rahul visits Goa before Ravi. Rahul does not visit in the month of February. Rakesh is the last one to visit Goa. None of them visited Goa on 10th February and 14th February. Rakesh will visit Goa on 10th. Rajesh visits Goa on the same date on which Ramu visits.
6. Who visited Goa in February?
a) Rahul b) Rakesh c) Ramu d) Either (A) or (B) e) Either (B) or (C)

7. Who visited Goa on 31st of May?
a) Ravi b) Rahul c) Rajesh d) Ramu e) None Of These

8. On which date Rakesh visited Goa?
a) 14th b) 12th c) 10th d) None of these e) Cannot be determined

9. The persons who visited Goa in the month of June, visited on which date?
a) 12th b) 10th c) 14th d) 31st e) Cannot be determined

10. Who among the following visited Goa in same month?
a) Rahul and Ramu b) Rakesh and Ramu c) Rahul and Rakesh
d) Ravi and Rakesh e) Ravi and Rahul

11. **Statements:**
All Reliance is building
No building is Jio
Some Jio is not power
Conclusions:
I. All building is power
II. All reliance being power is a possibility
a) Only I follows b) Only II follows c) Both I and II follow
d) Either I or II follows e) Neither I nor II follows

12. **Statements:**
Only a few cake is pastry
No pastry is cookies
All cookies is biscuit
Conclusions:
I. No cake is cookies
II. All cake is cookies
a) Only I follows b) Only II follows c) Both I and II follow
d) Either I or II follows e) Neither I nor II follows

13. **Statements:**
100% Pen are Phones
Only 5G is Phones
Conclusions:
I. All 5G being Phone is a possibility
II. All phones are Pen
a) Only I follows b) Only II follows c) Both I and II follow
d) Either I or II follows e) Neither I nor II follows

14. **Statements:**
No photo is Frame
No Frame is Glass
Conclusions:
I. A few photos are Glass
II. No Glass is Photo
a) Only I follows b) Only II follows c) Both I and II follow
d) Either I or II follows e) Neither I nor II follows

15. **Statements:**
Some papers are books.
All papers are words
Conclusions:
I. All words being books is a possibility.
II. Some words are not papers
a) Only I follows b) Only II follows c) Both I and II follow
d) Either I or II follows e) Neither I nor II follows

16. **Statement**s: $X = Y \geq E > F > G > H > I$, $F < Z \leq T$
Conclusions: I. $X < G$ II. $Z > Y$
(a) If only conclusion I follows (b) If only conclusion II follows
(c) If either conclusion I or II follows (d) If neither conclusion I nor II follows
(e) If both conclusions I and II follows

17. **Statement**s: $P < F \leq T < V = Q$, $S \geq U > T$
Conclusions: I. $F < S$ II. $T > P$
(a) If only conclusion I follows (b) If only conclusion II follows
(c) If either conclusion I or II follows (d) If neither conclusion I nor II follows
(e) If both conclusions I and II follows

18. **Statements**: $Y \geq L < T = Q > U$, $K \leq C < L$

Conclusions: I. $Q > L$ II. $K < Y$

(a) If only conclusion I follows (b) If only conclusion II follows

(c) If either conclusion I or II follows (d) If neither conclusion I nor II follows

(e) If both conclusions I and II follows

19. **Statements**: $A \geq T \geq S = D \geq Q$

Conclusions: I. $A > Q$ II. $Q = A$

(a) If only conclusion I follows (b) If only conclusion II follows

(c) If either conclusion I or II follows (d) If neither conclusion I nor II follows

(e) If both conclusions I and II follows

20. **Statements**: $E > X < O = N \geq F \geq U < D = Q > V \geq Y$

Conclusions: I. $U > X$ II. $E \geq Q$

(a) If only conclusion I follows (b) If only conclusion II follows

(c) If either conclusion I or II follows (d) If neither conclusion I nor II follows

(e) If both conclusions I and II follows

21. If 1st Jan 2025 is Wednesday, what day will be on 1st March 2025?

a) Saturday b) Sunday c) Monday d) Tuesday

22. If 1st January 2021 was a Friday, what day was 1st January 2020?

a) Tuesday b) Wednesday c) Thursday d) Sunday

23. How many times do the hands of a clock coincide in a day?

a) 11 b) 22 c) 12 d) 24

24.Three different positions on the same dice are shown. Find the number of the face opposite the face having "2".

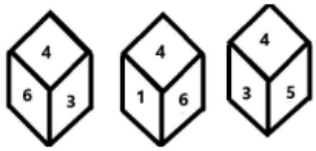

a) 1 b) 4 c) 3 d) 6

25. When folded, which side is opposite to 4?

a) 2 b) 3 c) 6 d) 5

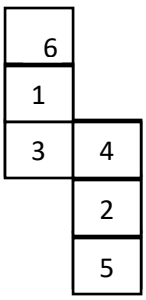

MATHS

(Q1-Q5) Upper graph shows the number of students who attended the interview and the lower graph shows the number of selected students in the interview from four different exams.

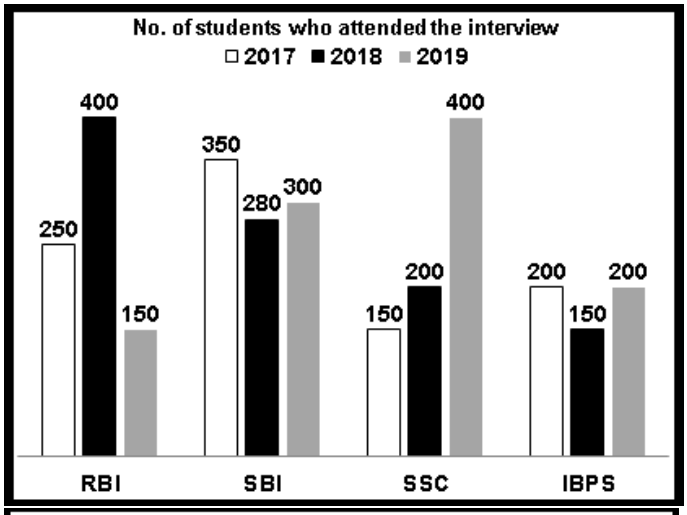

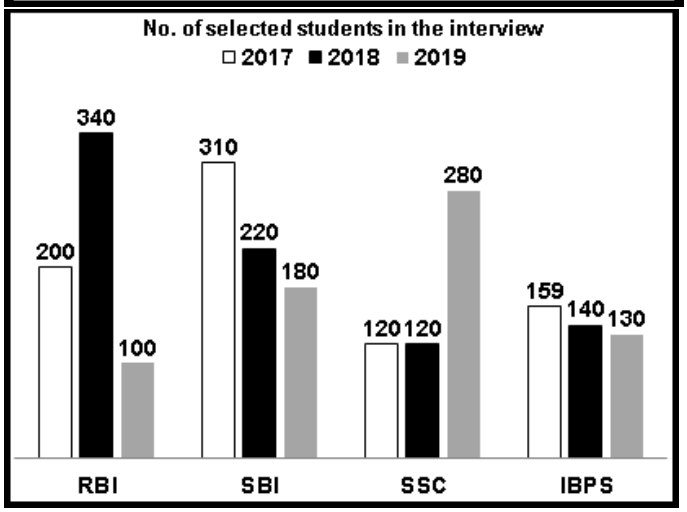

1. In which of the given years, the number of students attended the interview from IBPS has maximum percentage of selected students?

a) 2017 b) 2018 c) 2019 d) Cannot be determined e) None of these

2. What is the percentage of the students selected in the interview from SSC exam in 2019 to that of the students who attended the interview?

a) 30% b) 45% c) 76% d) 70% e) 80%

3. What is the ratio of the number of students who attended the interview from RBI exam in 2017 to the number of student who attended the interview from SBI exam in 2019?

a) 3:4 b) 6:7 c) 8:9 d) 1:2 e) 5:6

4. What is the average number of students who attended the SBI exam during the given years?

a) 310 b) 320 c) 210 d) 420 e) 330

5. What is the percent of total number of students selected to the total number of students who attended the Interview among all the four exams in 2018?

a)75.6% b) 79.61% c) 56.78% d) 67.95% e) 87.34%

6. 8.99 × 8.99 × 8.99 ÷ 2.99 = $3^?$

a) 7 b) 5 c) 3 d) 2

7. $\left(39.99\%\ of\ \frac{2}{5} + 60.05\%\ of\ \frac{1}{5}\right) \times\ 10^3 = ?$

a) 369 b) -369 c) 279 d) -279

8. $14.982^2\ \div 5.001^2\ \times 4.990\ \times\ 5^{-1} = ?$

a) 45 b) 75 d) 9 d) 225

9. (1522.76 + 2889.57 – 1025.14) ÷ 4.05 × 2 = ? + 134.099

a) 1400 b) 1450 c) 1560 d) 1640

10. 10.805 × 2.5 × 9.99^2= ?

a) 2500 b) 2300 c) 2700 d) 3100

11. The unit digit in 3 × 38 × 537 × 1256 is :

a) 4 b) 2 c) 6 d) 8

12. What is the unit digit in the multiplication of

1 × 3 × 5 × 7 × 9...× 999?

a) 1 b) 3 c) 5 d) 9

13. Find the unit digit of $973^{234!} \times 234^{973!}$.

a) 2 b) 6 c) 7 d) 9

14. The square root of any prime number is:

a) Rational b) Whole c) Irrational d) Integer

15. The sum of 3 prime numbers is 100. One number is greater than another number by 36.Find the largest number.

a) 61 b) 59 c) 67 d) 71

16. The monthly expenses of a person are $66\frac{2}{3}$% more than her monthly savings. If her monthly income increases by 44% and her monthly expenses increases by 60%, then there is an increase of Rs 1,040 in her monthly savings. What is the initial expenditure (in Rs)?

a) 9,000 b) 12,000 c) 10,000 (d) 13,000

17. A man spends 80% of his income. His income has increased by 25%, but his expenditure remains the same. By what percent have his savings increased?

a) 125% b) 150% c) 100% d) 200%

18. Three persons A, B and C donate 5%, 10% and 15% respectively of their monthly salaries to a charitable trust. Monthly salaries of A and B are equal and the sum between the donations of A and B is Rs.1500. If the total donation by A and B is Rs.4500 less than that of C, then what is the monthly salary (in Rs.) of all three together?

a) 60000 b) 40000 c) 10000 d) 20000

19. In an institute, 30% are boys and the rest are girls. If $16\frac{2}{3}$% of the boys failed and $7\frac{1}{7}$% of the girls failed in an examination, then the percentage of the students who passed in the examination is:

a) 10% b) 90% c) 20% d) 80%

20. If the Numerator of a fraction be increased by 50% and its denominator be diminished by 28%, the value of the fraction $\frac{25}{36}$. Find the original fraction.

a) $\frac{1}{5}$ b) $\frac{2}{3}$ c) $\frac{2}{5}$ d) $\frac{1}{3}$

21. Fresh fruit contains 60% water and dry fruits contain 20% water. How much dry fruit can be obtained from 100 kgs of fresh fruits?

a) 32 b) 50 c) 52 (d) 80

22. A student scores 30% marks and fails by 10 marks while another student who scores 55% marks, gets 40 marks more than the minimum required pass marks. What is the percentage required for passing?

a) 35% b) 33% c) 45% d) 37%

23. Two candidates participated in an election. 20% voters did not cast their votes and 10% votes were declared invalid. Winner candidates got 40% of total votes enrolled in the voters list and got elected by 2400 votes. Find the total number of voters in voters list.

a) 20000 b) 24000 c) 27500 d) 30000

24. In an office 55% people like tea and 64% people like coffee. If 380 people like both tea and coffee then find total number of members?

a) 1000 b) 1500 c) 2000 d) None of these

25. The population of a town increases by 20% in the first year, decreases by 10% in the second year, and again increases by 25% in the third year. If the population at the beginning was 40,000. What will it be after 3 years?

a) 24,000 b) 43,200 c) 48,000 d) 54,000